Q1　(10 点)　　ID: text01/page03/001

時間領域ディジタル信号 $f[i] = 3 + 2 \cdot i \ \ (i = 0, 1, \cdots, 5)$ のグラフを選択肢 a〜d の中から 1 つ選びなさい。

(a)

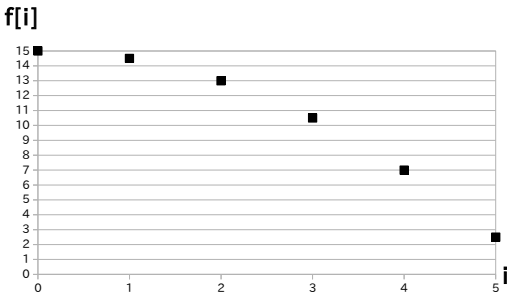

(b)

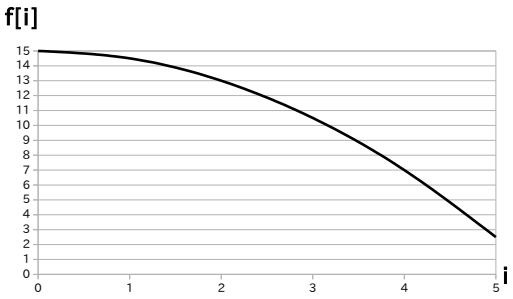

(c)

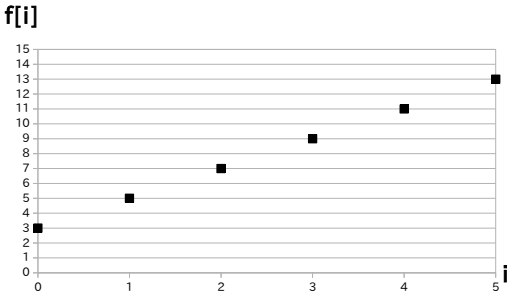

(d)

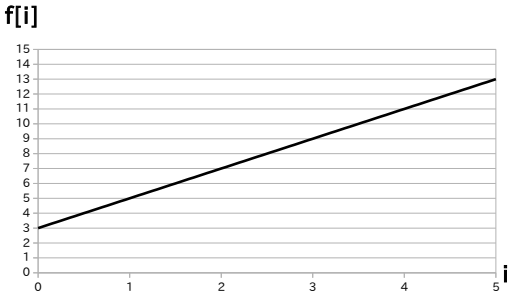

Q2　(10 点)　ID: text01/page03/002

直線 $i = 3$ のグラフを選択肢 a〜d の中から 1 つ選びなさい。

(a)

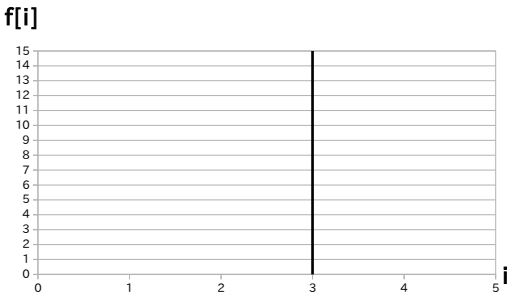

(b)

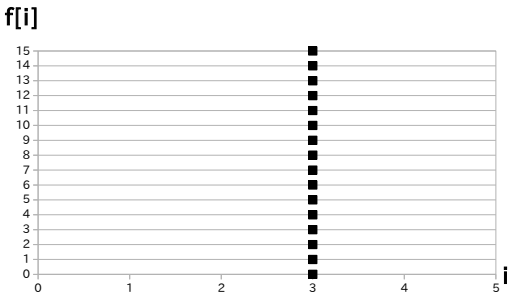

(c)

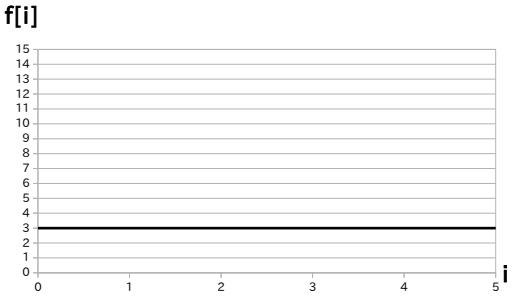

(d)

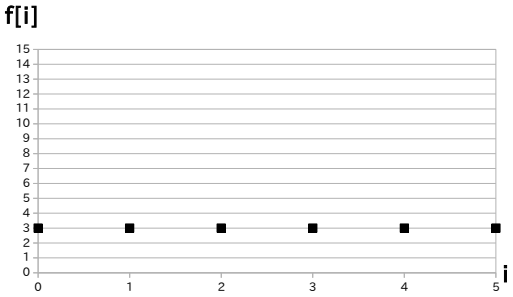

Q3　(10 点)　　ID: text01/page03/003

時間領域ディジタル信号 $f[i] = i^2/25 \ \ (i = 0, 1, \cdots, 5)$ のグラフを選択肢 a〜d の中から 1 つ選びなさい。

(a)

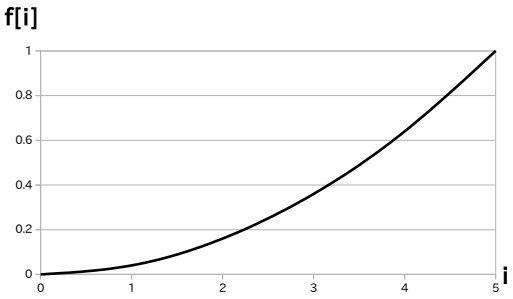

(b)

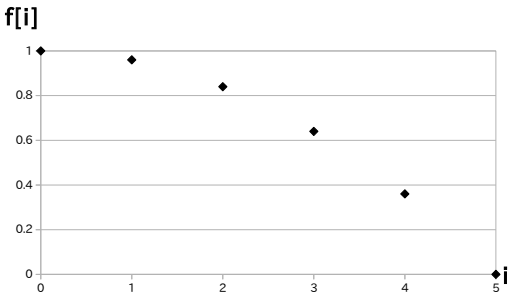

(c)

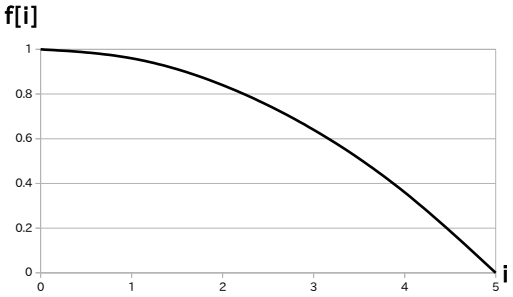

(d)

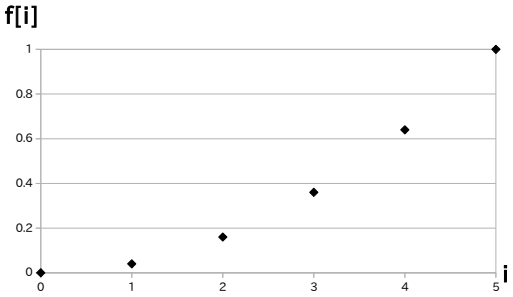

Q4　(10 点)　ID: text01/page03/004

直線 $i = -1$ のグラフを選択肢 a〜d の中から 1 つ選びなさい。

(a)

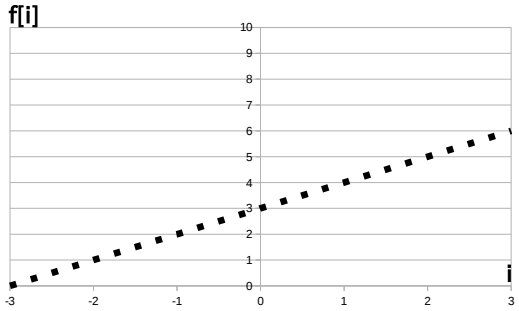

(b)

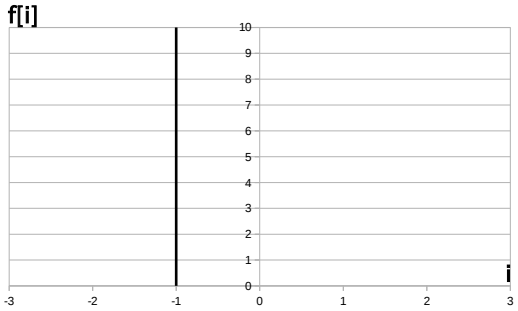

(c)

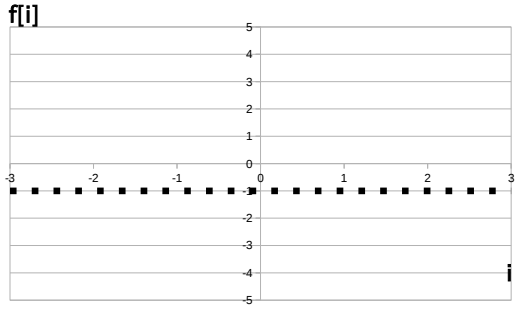

(d)

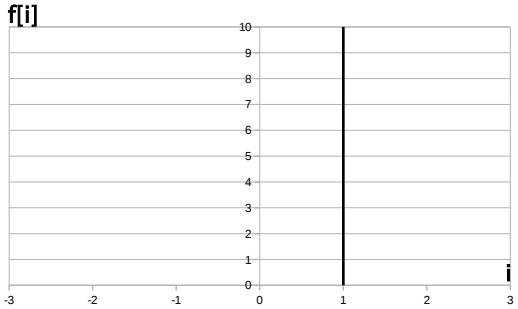

Q5　(10 点)　ID: text01/page03/005

時間領域ディジタル信号 $f[i] = i/5 \ (i = 0, 1, \cdots, 5)$ のグラフを選択肢 a〜d の中から 1 つ選びなさい。

(a)

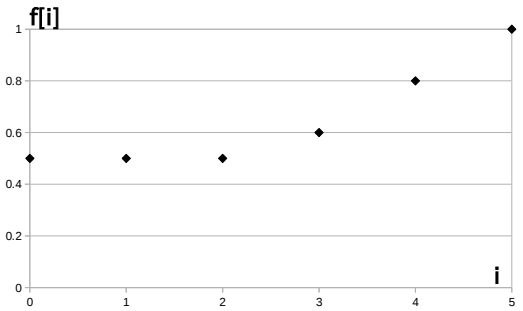

(b)

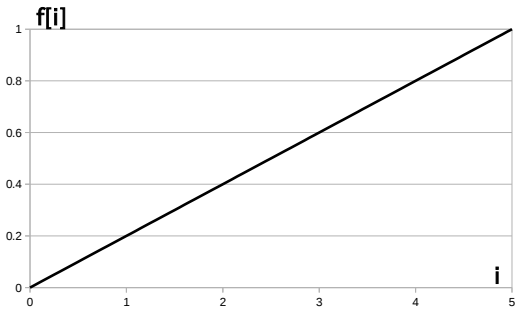

(c)

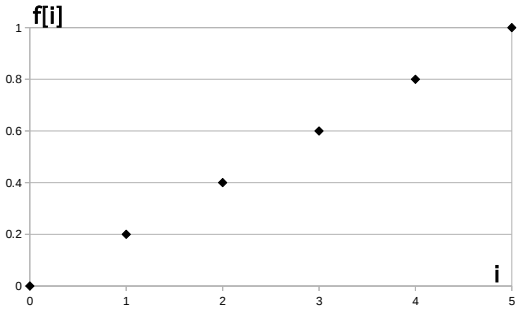

(d)

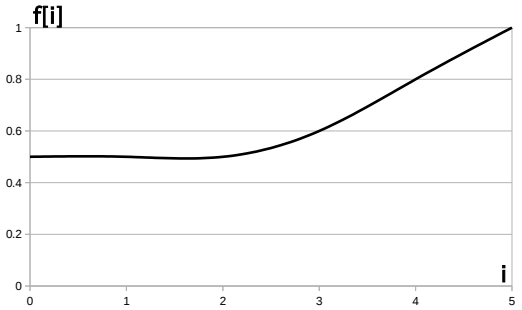

Q6　(10 点)　ID: text01/page03/006

直線 $i = 2.5$ のグラフを選択肢 a〜d の中から 1 つ選びなさい。

(a)

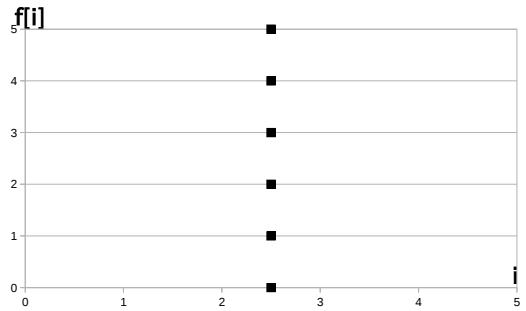

(b)

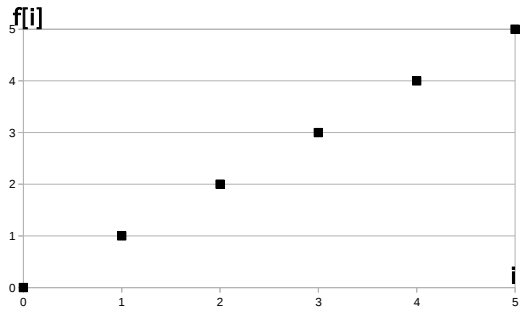

(c)

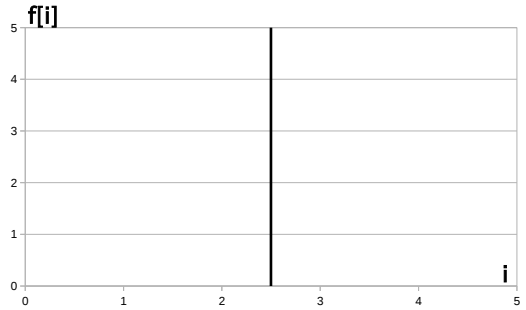

(d)

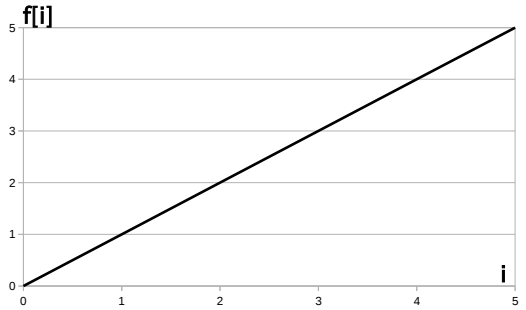

Q7　(10 点)　　ID: text01/page03/007

時間領域ディジタル信号 $f[i] = 1 - i/5 \ \ (i = 0, 1, \cdots, 5)$ のグラフを選択肢 a〜d の中から 1 つ選びなさい。

(a)

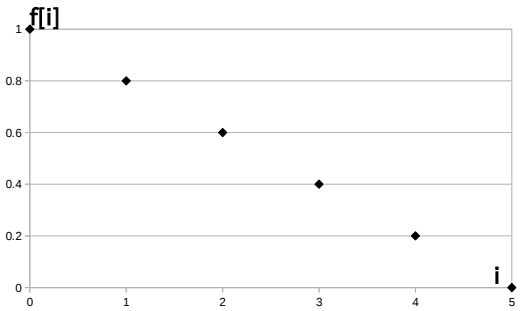

(b)

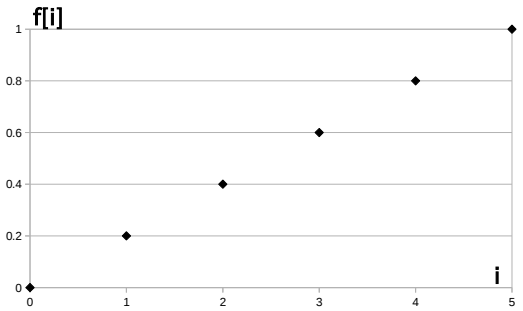

(c)

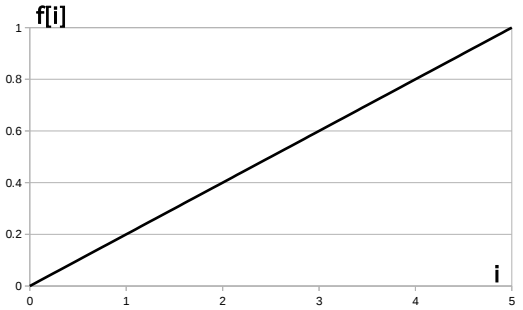

(d)

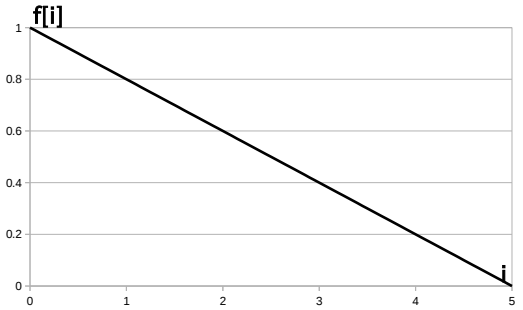

Q8　(10 点)　　ID: text01/page03/008

時間領域ディジタル信号 $f[i] = 1,\ (i = 0, 1, \cdots, 5)$ のグラフを選択肢 a〜d の中から 1 つ選びなさい。

(a)

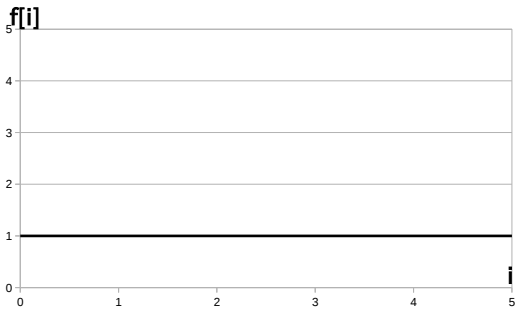

(b)

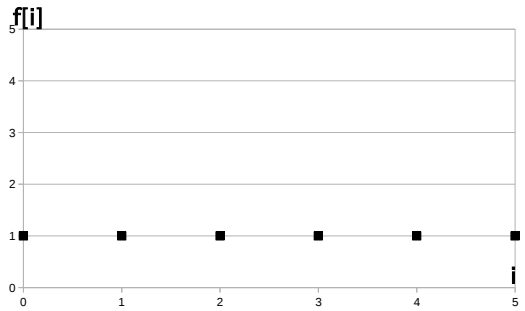

(c)

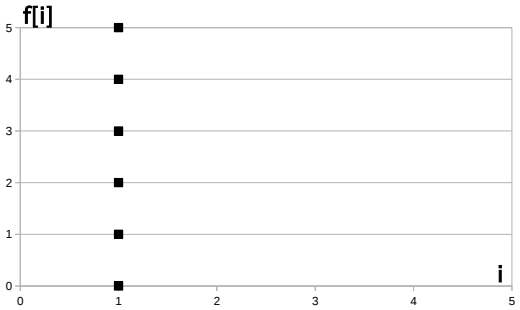

(d)

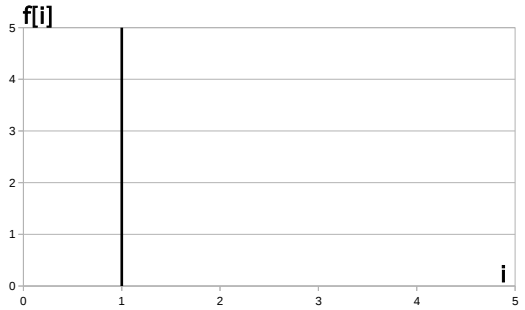

Q9　(10 点)　ID: text01/page03/009

時間領域ディジタル信号 $f[i] = i^3/125 \ \ (i = 0, 1, \cdots, 5)$ のグラフを選択肢 a〜d の中から 1 つ選びなさい。

(a)

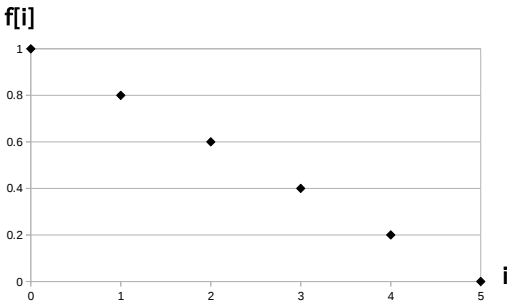

(b)

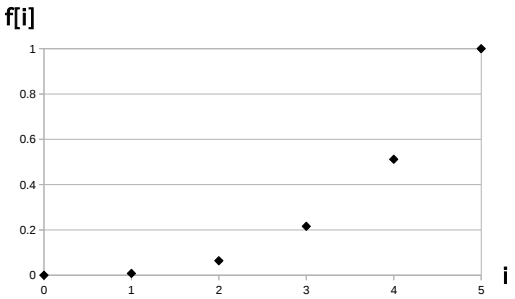

(c)

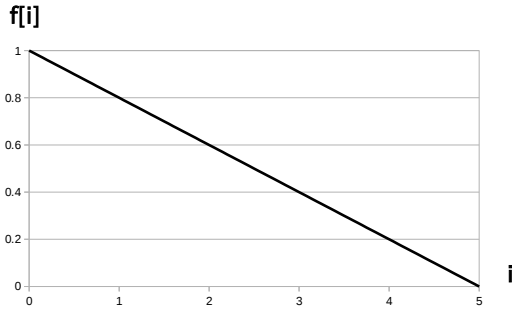

(d)

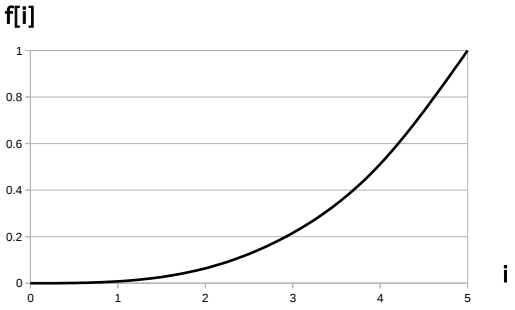

Q10　(10 点)　ID: text01/page03/010

時間領域ディジタル信号 $f[i] = 1 + 6/(i+1)$ のグラフを選択肢 a〜d の中から 1 つ選びなさい。

(a)

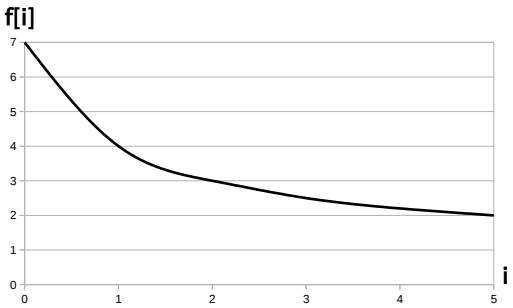

(b)

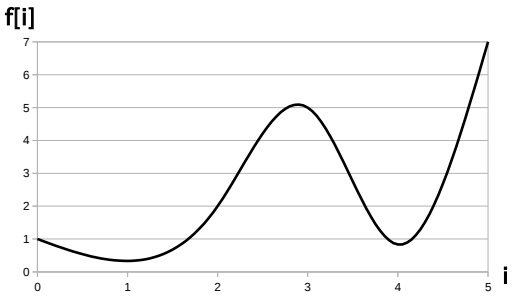

(c)

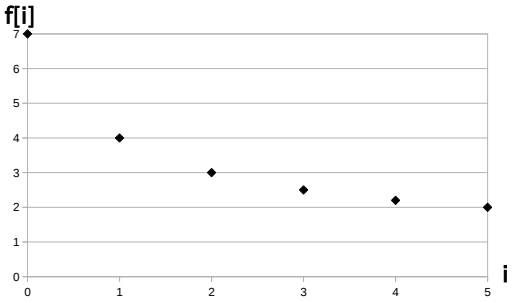

(d)

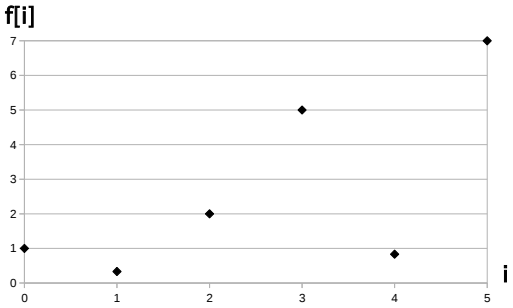

Q11　(10 点)　　ID: text01/page03/011

時間領域ディジタル信号 $f[i] = 4,\ (i = 0, 1, \cdots, 5)$ のグラフを選択肢 a〜d の中から 1 つ選びなさい。

(a)

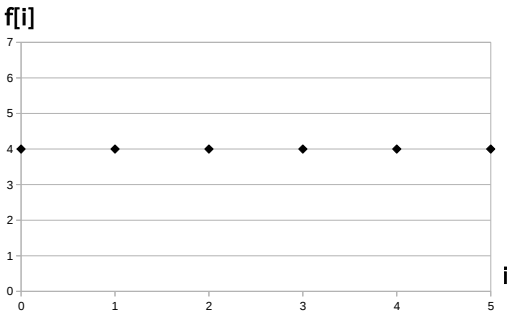

(b)

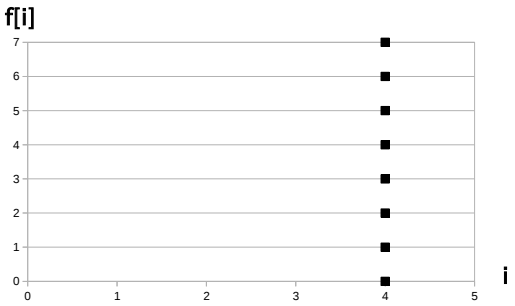

(c)

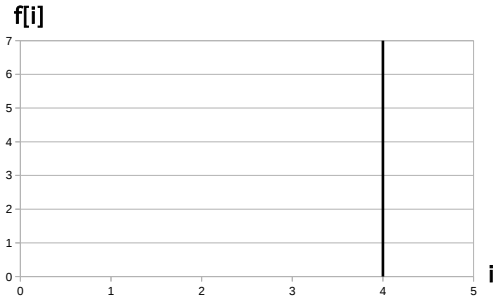

(d)

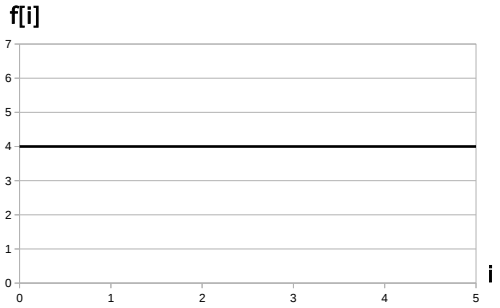

Q12　(10 点)　ID: text01/page03/012

時間領域ディジタル信号 $f[i] = -(i+1)/2,\ (i = 0, 1, \cdots, 5)$ のグラフを選択肢 a〜d の中から 1 つ選びなさい。

(a)

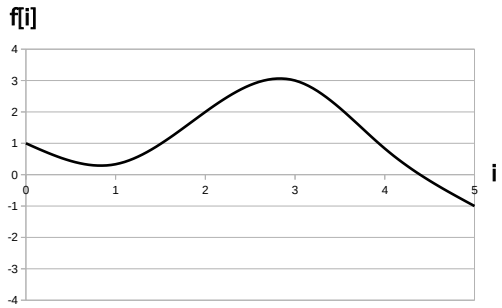

(b)

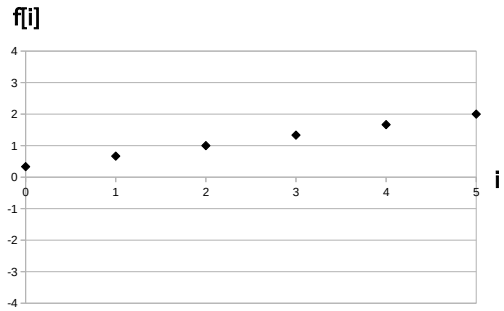

(c)

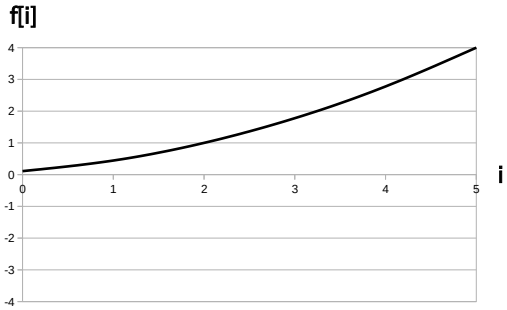

(d)

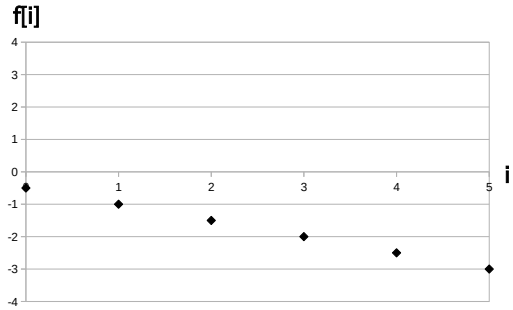

Q13　(10 点)　ID: text01/page03/013

時間領域ディジタル信号 $f[i] = \sqrt{i} + 1,\ (i = 0, 1, \cdots, 5)$ のグラフを選択肢 a〜d の中から 1 つ選びなさい。

(a)

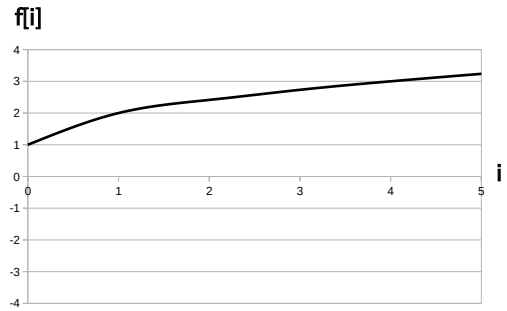

(b)

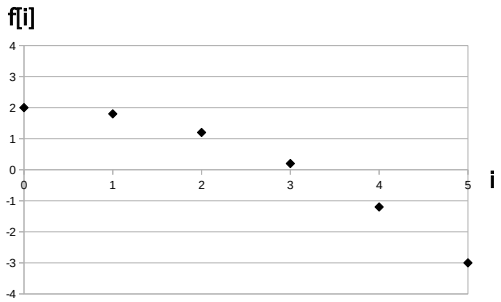

(c)

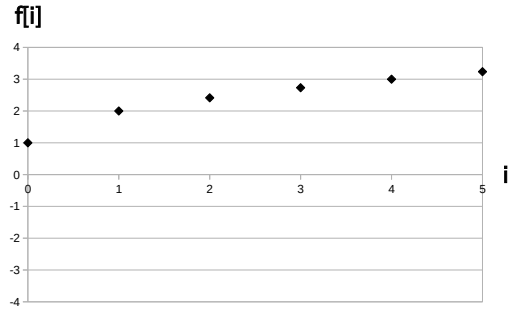

(d)

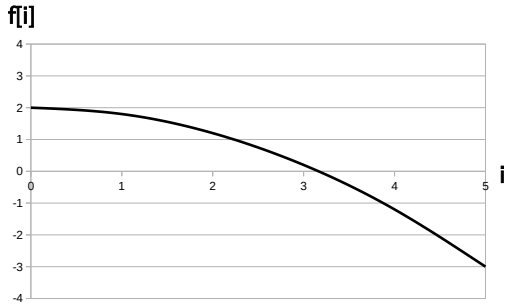

Q14　(10 点)　　ID: text01/page03/014

直線 $i = 1$ のグラフを選択肢 a〜d の中から 1 つ選びなさい。

(a)

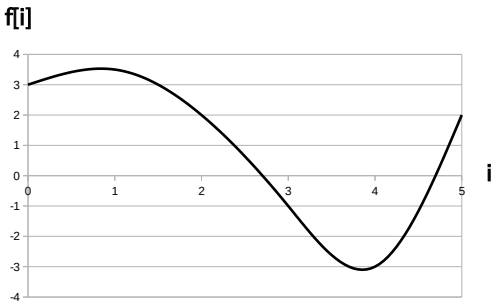

(b)

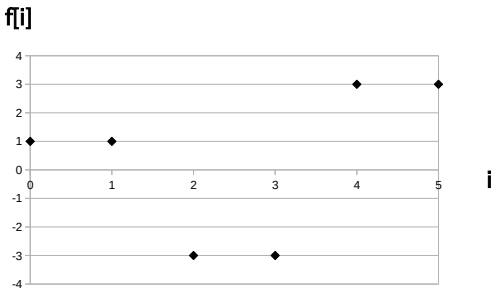

(c)



(d)

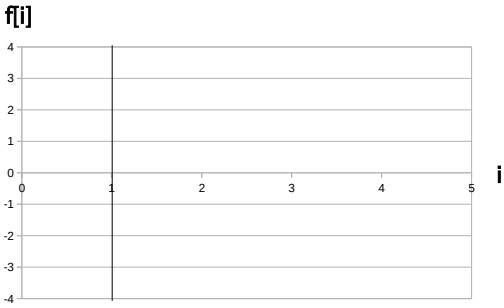

Q15　(10 点)　ID: text01/page03/015

時間領域ディジタル信号 $f[i] = \sin(\pi/2 \cdot i) + 1,\ (i = 0, 1, \cdots, 5)$ のグラフを選択肢 a〜d の中から 1 つ選びなさい。

(a)

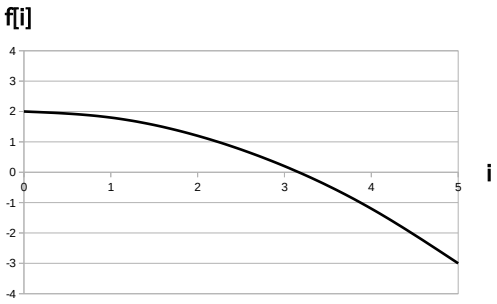

(b)

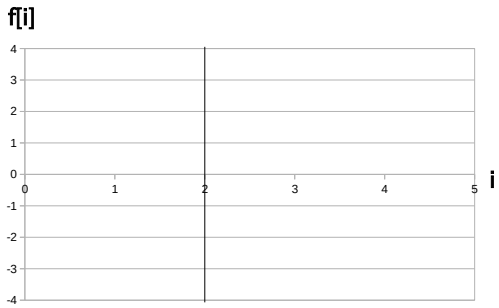

(c)

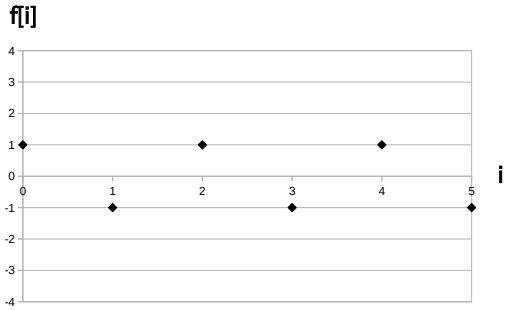

(d)

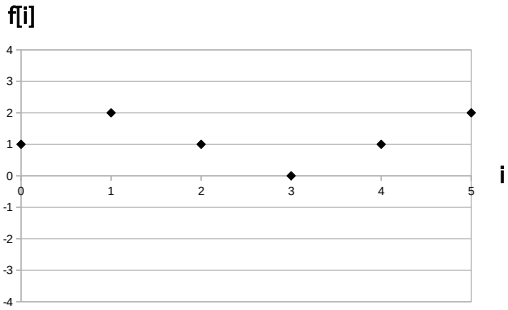

Q16　(10 点)　　ID: text01/page03/016

時間領域ディジタル信号 $f[i] = \frac{i^3}{2},\ (i = -2, -1, 0, 1, 2)$ のグラフを選択肢 a〜d の中から 1 つ選びなさい。

(a)



(b)

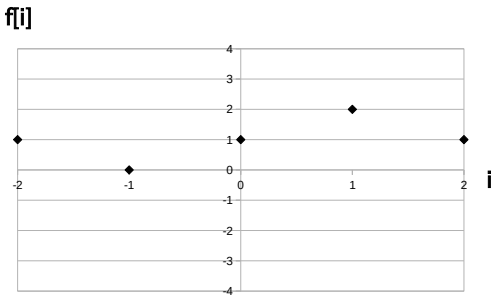

(c)

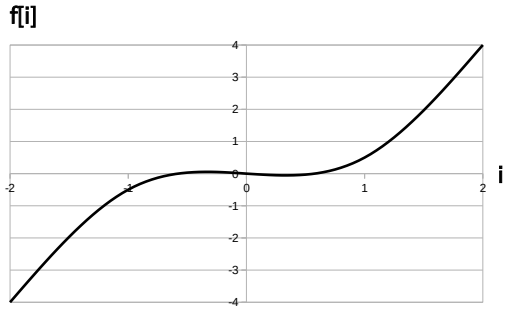

(d)

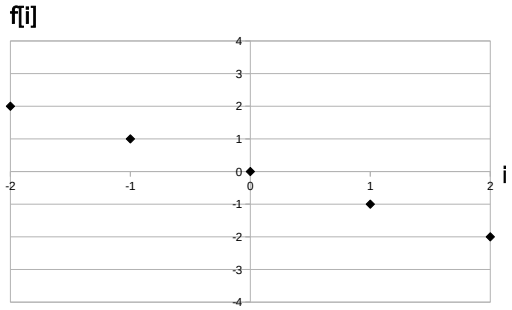

Q17　(10 点)　　ID: text01/page03/017

時間領域ディジタル信号 $f[i] = \sqrt{2i},\ (i = 0, 1, \cdots, 5)$ のグラフを選択肢 a〜d の中から 1 つ選びなさい。

(a)

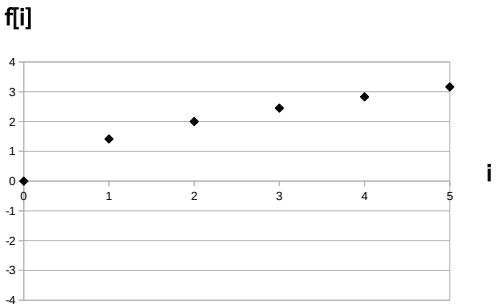

(b)

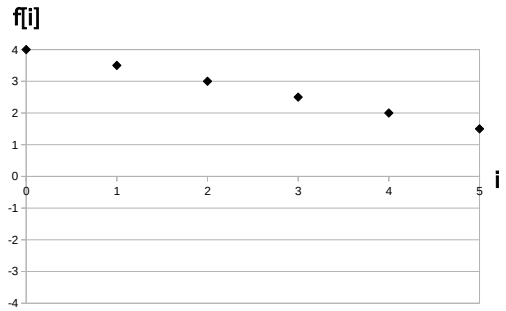

(c)



(d)

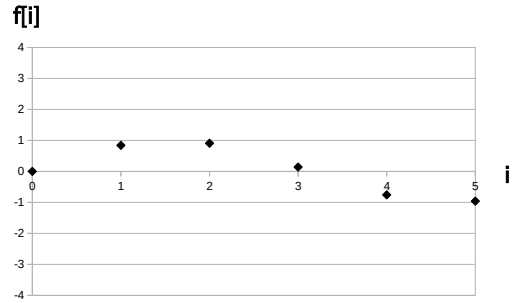

Q18　(10 点)　ID: text01/page03/018

時間領域ディジタル信号 $f[i] = 0,\ (i = 0, 1, \cdots, 5)$ のグラフを選択肢 a〜d の中から 1 つ選びなさい。

(a)



(b)

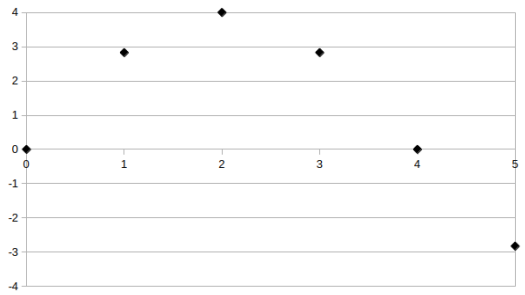

(c)

(d)

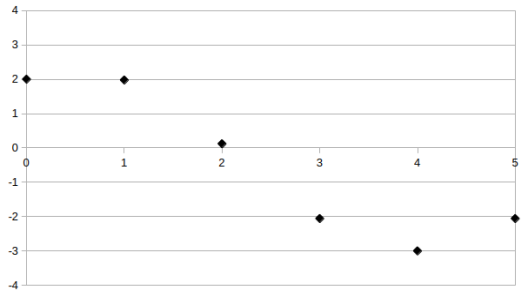

Q19　(10 点)　　ID: text01/page03/019

時間領域ディジタル信号 $f[i] = -4 + i,\ (i = 0, 1, \cdots, 5)$ のグラフを選択肢 a〜d の中から 1 つ選びなさい。

(a)

(b)

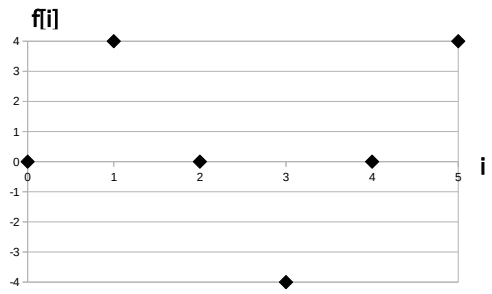

(c)

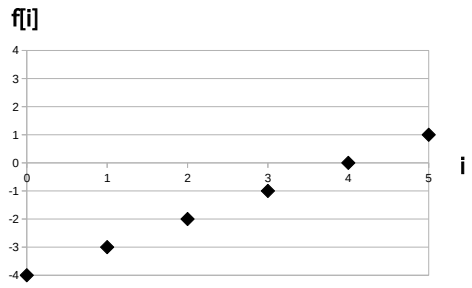

(d)

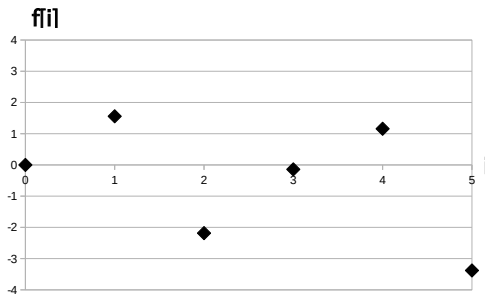

Q20　(10 点)　　ID: text01/page03/020

直線 $i = -2$ のグラフを選択肢 a〜d の中から 1 つ選びなさい。

(a)

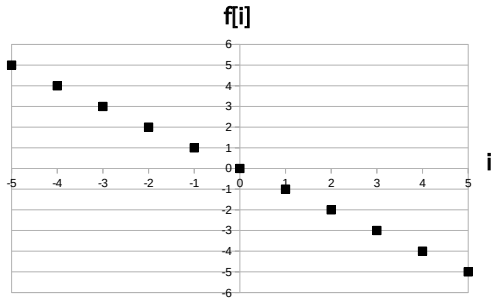

(b)



(c)

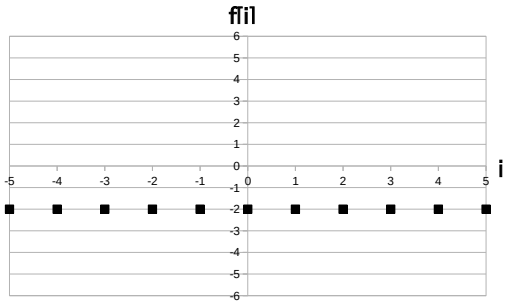
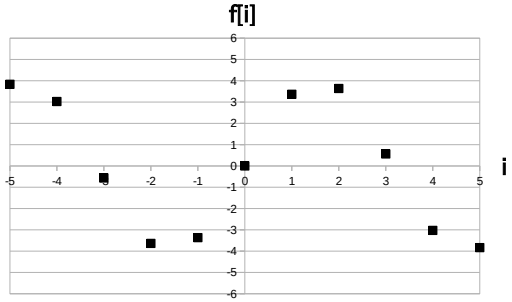
(d)