Q1　(10 点)　ID: text01/page06/001

直流 (DC) 信号 $f[i] = 2$ のグラフを選択肢 a〜d の中から 1 つ選びなさい。

(a)

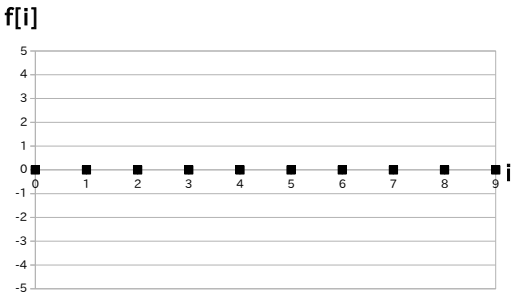

(b)

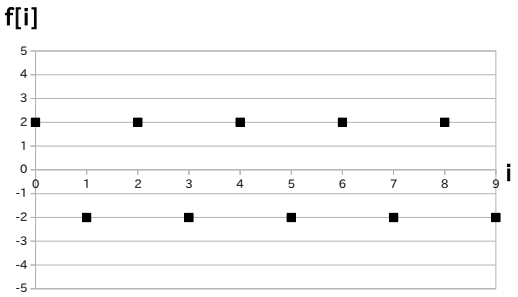

(c)

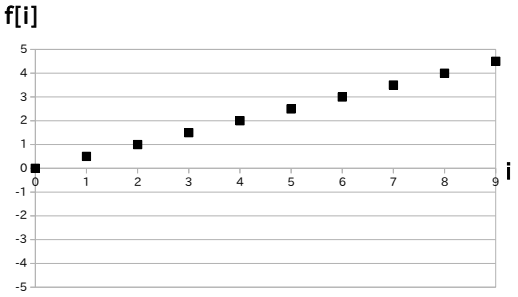

(d)

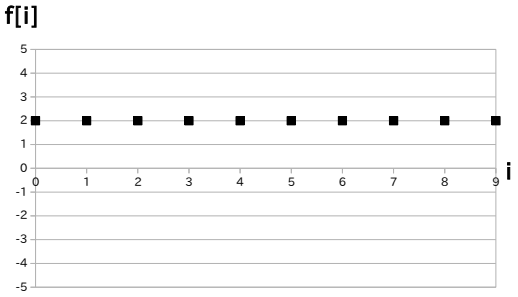

Q2　(10 点)　ID: text01/page06/002

次のディジタル信号の式を選択肢 a〜d の中から 1 つ選びなさい。

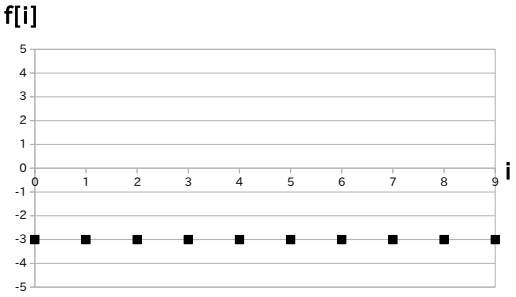

(a)

$$f[i] = i$$

(b)

$$f[i] = -3 \cdot i$$

(c)

$$f[i] = 3$$

(d)

$$f[i] = -3$$

Q3　(10 点)　　ID: text01/page06/003

次のディジタル信号の式を選択肢 a〜d の中から 1 つ選びなさい。

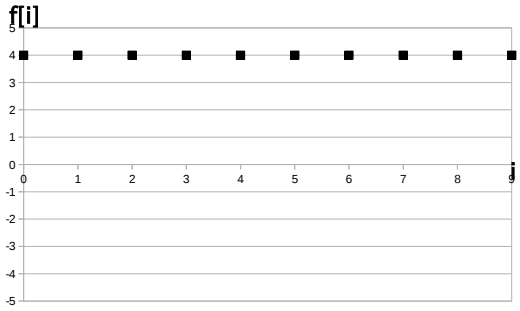

(a)

$$f[i] = 2$$

(b)

$$f[i] = -2$$

(c)

$$f[i] = 4$$

(d)

$$f[i] = \sin(2\pi \cdot i)$$

Q4　(10 点)　　ID: text01/page06/004

次のディジタル信号の式を選択肢 a〜d の中から 1 つ選びなさい。

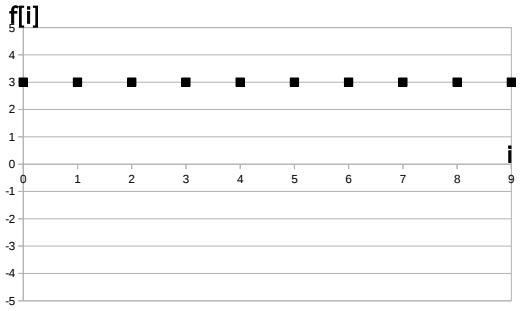

(a)

$$f[i] = -5$$

(b)

$$f[i] = 3$$

(c)

$$f[i] = 4$$

(d)

$$f[i] = 2 \cdot i$$

Q5　(10 点)　　ID: text01/page06/005

次のディジタル信号の式を選択肢 a〜d の中から 1 つ選びなさい。

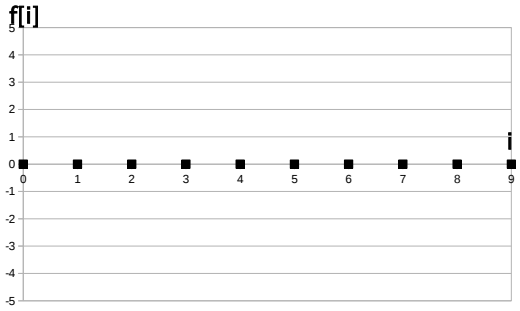

(a)

$$f[i] = 0$$

(b)

$$f[i] = -2$$

(c)

$$f[i] = 1$$

(d)

$$f[i] = 5$$

Q6　(10 点)　　ID: text01/page06/006

直流 (DC) 信号 $f[i] = -1$ のグラフを選択肢 a〜d の中から 1 つ選びなさい。

(a)

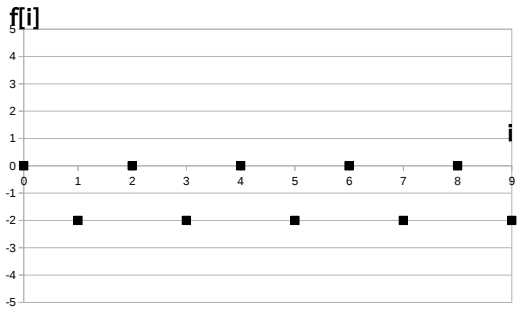

(b)

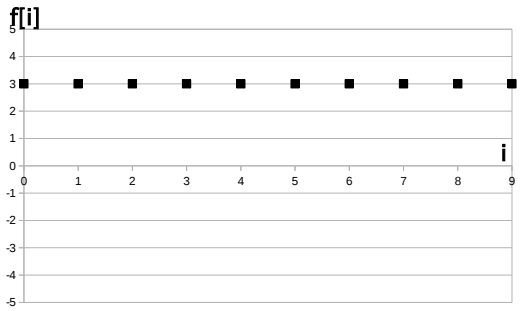

(c)



(d)

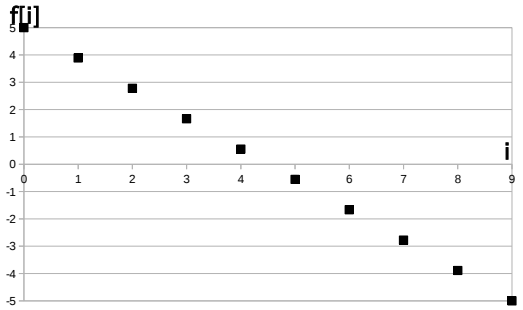

Q7　(10 点)　　ID: text01/page06/007

次のディジタル信号の式を選択肢 a〜d の中から 1 つ選びなさい。

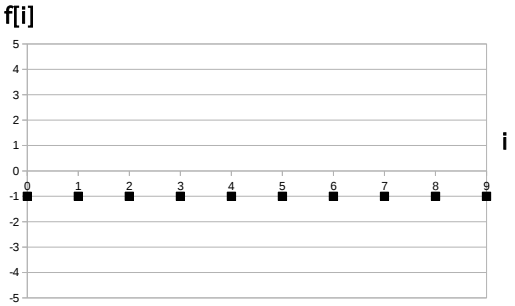

(a)

$$f[i] = 0$$

(b)

$$f[i] = -3$$

(c)

$$f[i] = -1$$

(d)

$$f[i] = 2$$

Q8　(10 点)　　ID: text01/page06/008

2 つの直流 (DC) 信号 $f[i] = 2$ 及び $g[i] = -1$ を足し合わせた信号 $h[i] = f[i] + g[i]$ のグラフを選択肢 a〜d の中から 1 つ選びなさい。

(a)

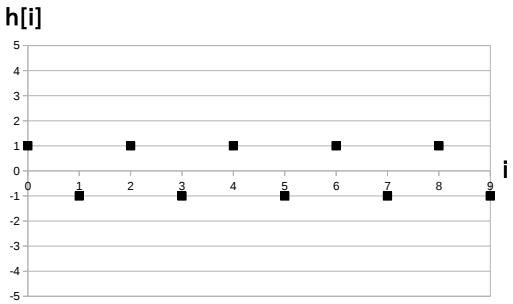

(b)

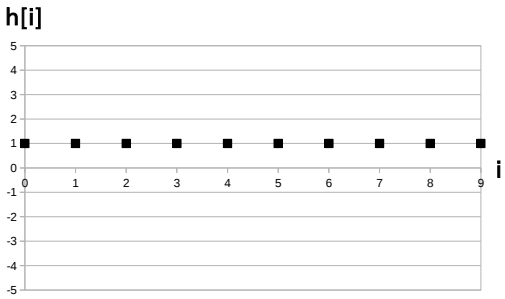

(c)

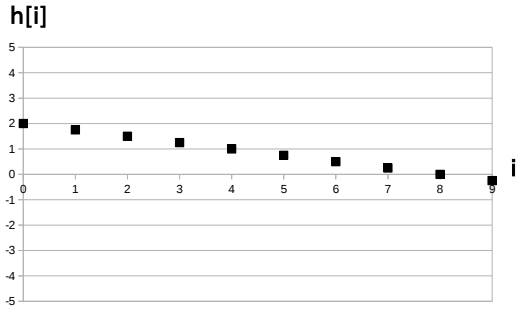

(d)

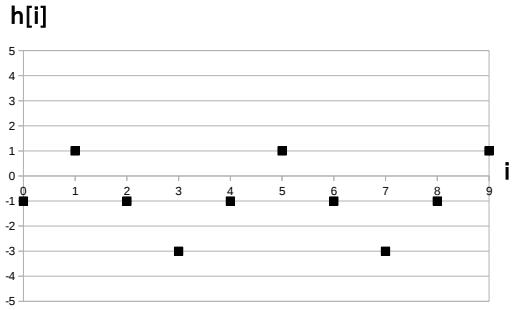

Q9　(10 点)　　ID: text01/page06/009

直流 (DC) 信号 $f[i] = 0$ のグラフを選択肢 a〜d の中から 1 つ選びなさい。

(a)

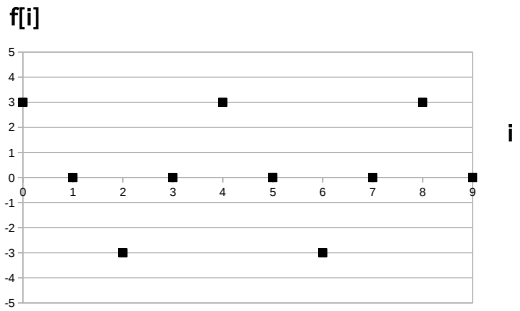

(b)

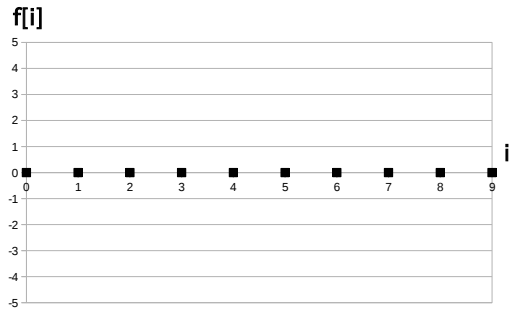

(c)

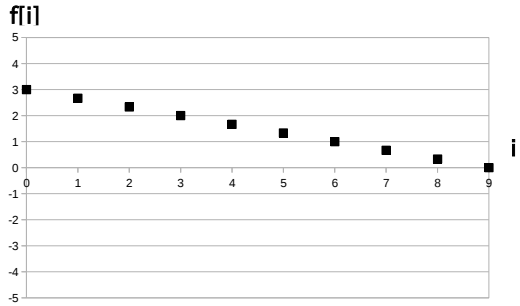

(d)

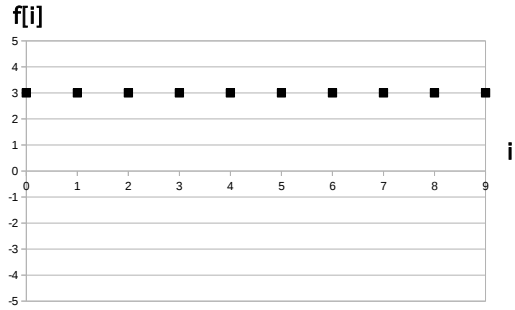

Q10　(10 点)　　ID: text01/page06/010

2 つの直流 (DC) 信号 $f[i] = -1$ 及び $g[i] = 1$ を足し合わせた信号 $h[i] = f[i] + g[i]$ のグラフを選択肢 a〜d の中から 1 つ選びなさい。

(a)

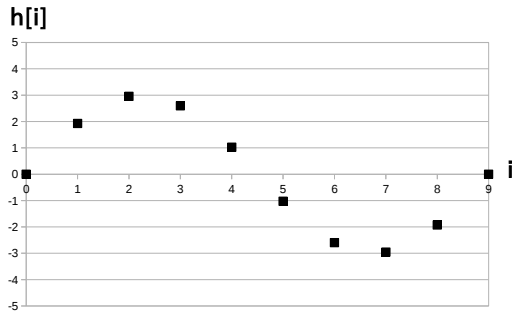

(b)

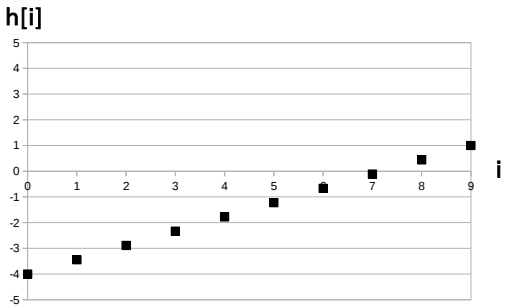

(c)

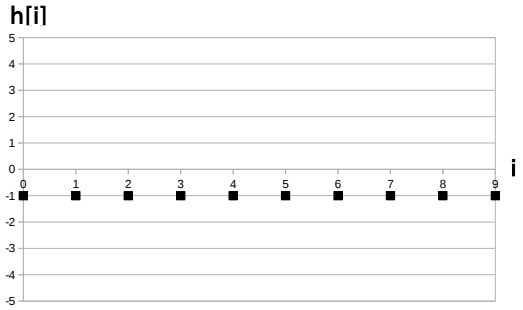

(d)

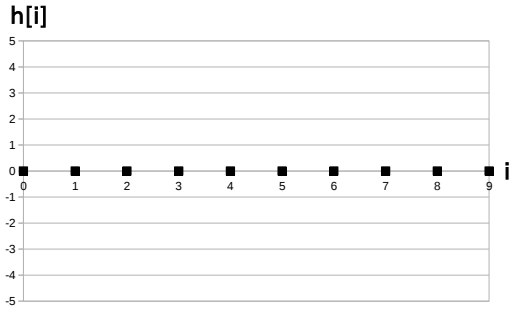

Q11　(10 点)　ID: text01/page06/011

次のディジタル信号の式を選択肢 a〜d の中から 1 つ選びなさい。

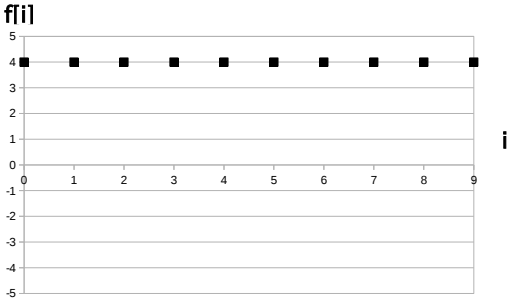

(a)

$$f[i] = 0$$

(b)

$$f[i] = 2$$

(c)

$$f[i] = 1$$

(d)

$$f[i] = 4$$

Q12　(10 点)　ID: text01/page06/012

3 つの直流 (DC) 信号 $a[i] = 1$ 及び $b[i] = 1$ 及び $c[i] = -2$ を足し合わせた信号 $h[i] = a[i] + b[i] + c[i]$ のグラフを選択肢 a〜d の中から 1 つ選びなさい。

(a)

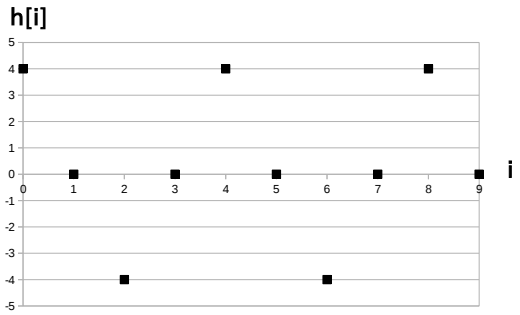

(b)

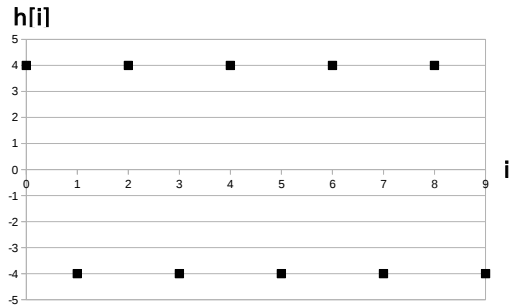

(c)

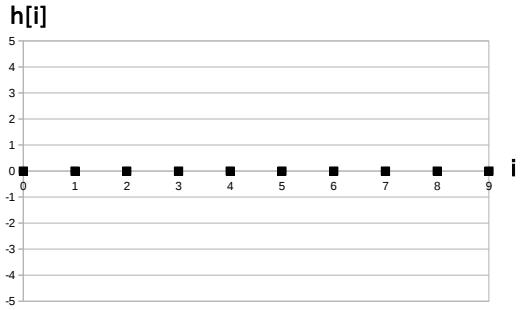

(d)

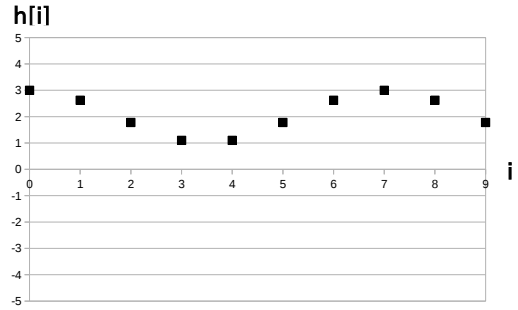

Q13　(10 点)　　ID: text01/page06/013

直流 (DC) 信号 $f[i] = 4$ のグラフを選択肢 a〜d の中から 1 つ選びなさい。

(a)

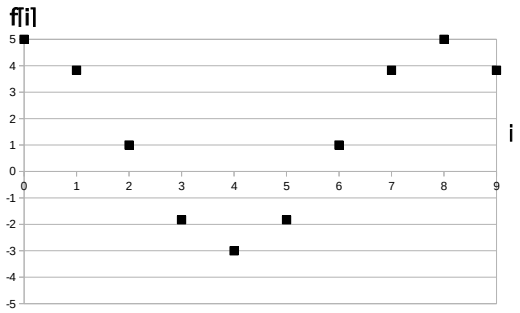

(b)

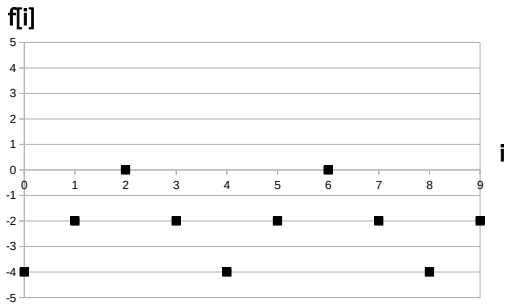

(c)

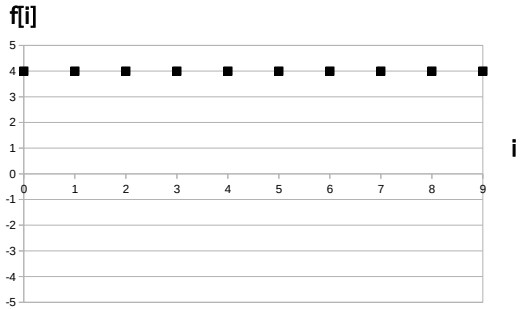

(d)

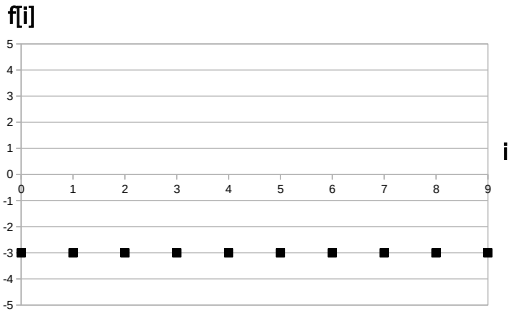

Q14　(10 点)　ID: text01/page06/014

次のディジタル信号の式を選択肢 a〜d の中から 1 つ選びなさい。

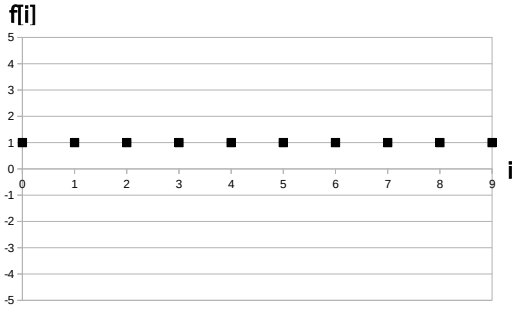

(a)

$$f[i] = 3$$

(b)

$$f[i] = 1$$

(c)

$$f[i] = 0$$

(d)

$$f[i] = -1$$

Q15　(10 点)　　ID: text01/page06/015

2 つの直流 (DC) 信号 $a[i] = 3$ 及び $b[i] = 1$ が与えられた時、合成信号 $h[i] = a[i] - b[i]$ のグラフを選択肢 a〜d の中から 1 つ選びなさい。

(a)

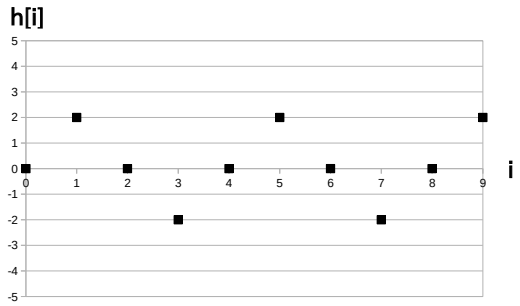

(b)

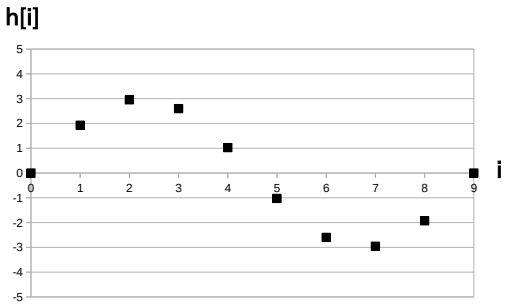

(c)

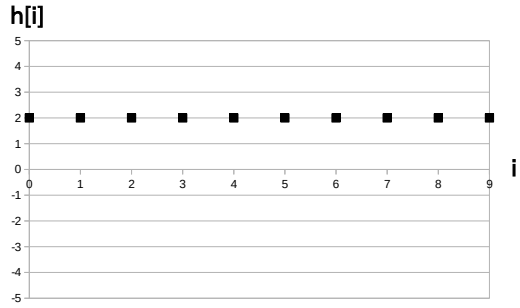

(d)

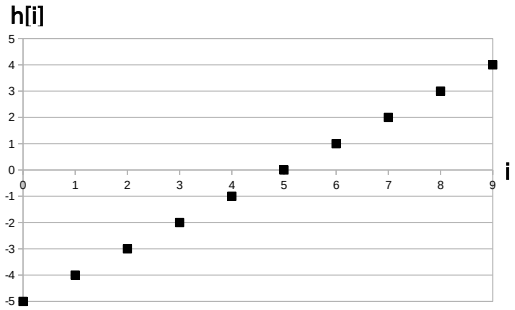

Q16　(10 点)　ID: text01/page06/016

次のディジタル信号の式を選択肢 a〜d の中から 1 つ選びなさい。

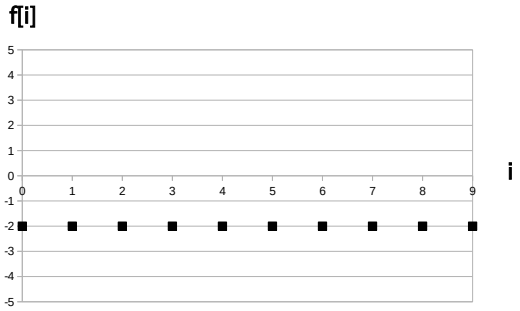

(a)

$$f[i] = -3$$

(b)

$$f[i] = 4$$

(c)

$$f[i] = -2$$

(d)

$$f[i] = 0$$

Q17　(10 点)　　ID: text01/page06/017

直流 (DC) 信号 $f[i] = 1$ のグラフを選択肢 a〜d の中から 1 つ選びなさい。

(a)



(b)

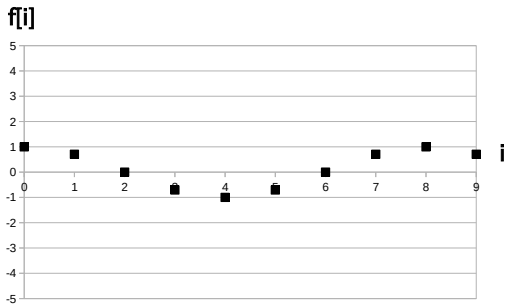

(c)



(d)

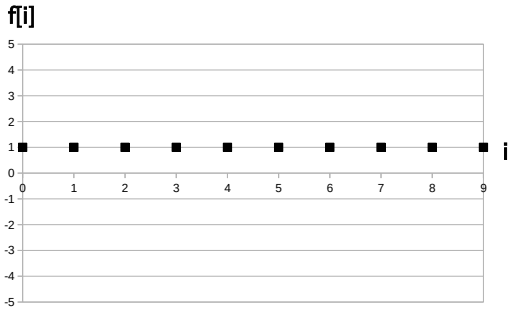

Q18　(10 点)

ID: text01/page06/018

2 つの直流 (DC) 信号 $a[i] = -2$ 及び $b[i] = 2$ が与えられた時、合成信号 $h[i] = a[i] + b[i]$ のグラフを選択肢 a〜d の中から 1 つ選びなさい。

(a)

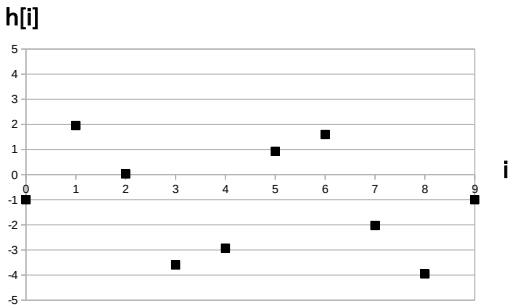

(b)

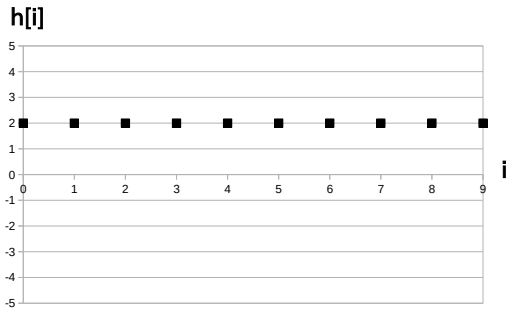

(c)



(d)

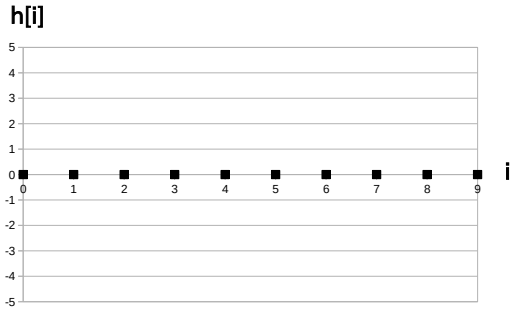

Q19　(10 点)　　ID: text01/page06/019

直流 (DC) 信号 $f[i] = 3$ のグラフを選択肢 a〜d の中から 1 つ選びなさい。

(a)

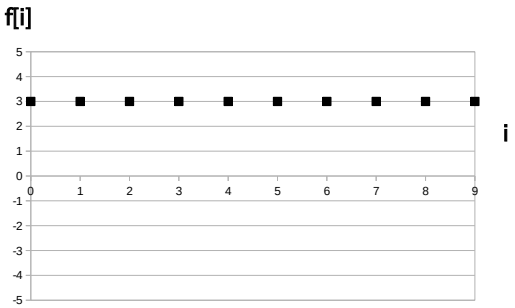

(b)

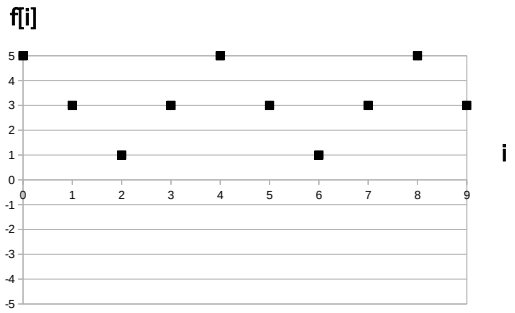

(c)

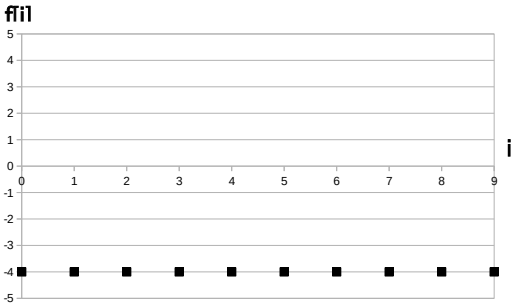

(d)



Q20　(10 点)　ID: text01/page06/020

2 つの直流 (DC) 信号 $a[i] = 1$ 及び $b[i] = 3$ が与えられた時、合成信号 $h[i] = a[i] + b[i]$ のグラフを選択肢 a〜d の中から 1 つ選びなさい。

(a)

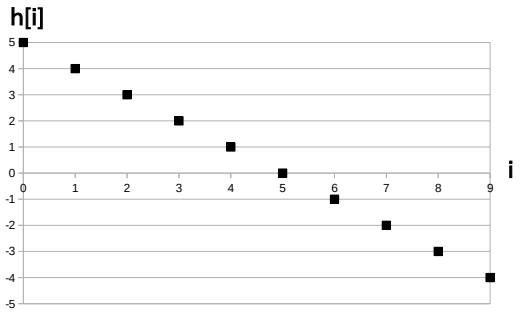

(b)

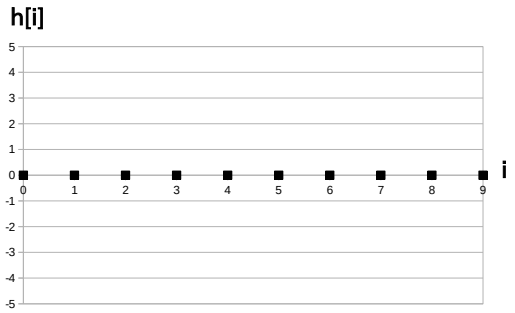

(c)

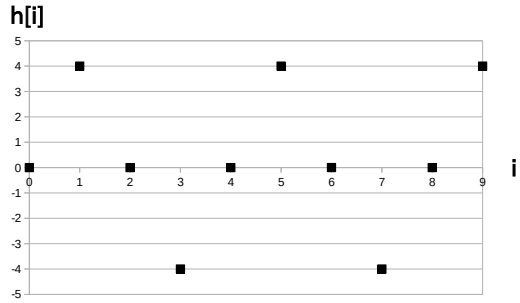

(d)

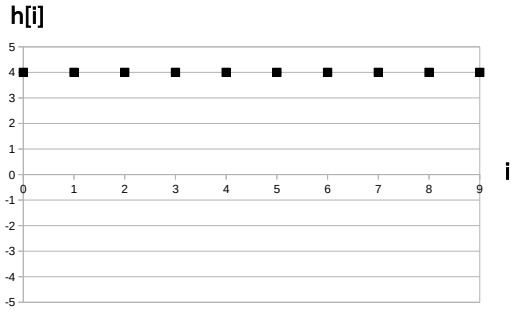

Q21　(10 点)　ID: text01/page06/021

次のディジタル信号の式を選択肢 a〜d の中から 1 つ選びなさい。

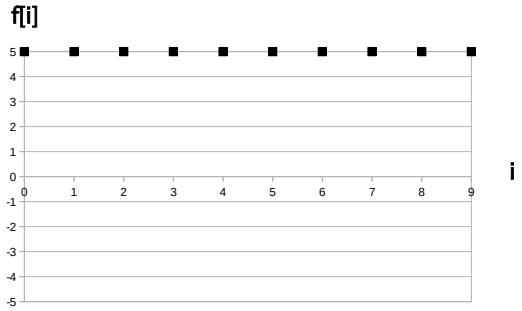

(a)

$$f[i] = 5i$$

(b)

$$f[i] = i$$

(c)

$$f[i] = 0$$

(d)

$$f[i] = 5$$

Q22　(10 点)　ID: text01/page06/022

次のディジタル信号の式を選択肢 a〜d の中から 1 つ選びなさい。

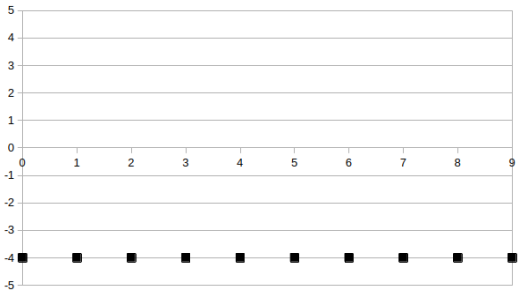

(a)

$$f[i] = -4 \cdot i$$

(b)

$$f[i] = 3 \cdot i$$

(c)

$$f[i] = \cos(2\pi \cdot i)$$

(d)

$$f[i] = -4$$

Q23　(10 点)　ID: text01/page06/023

ディジタルの直流信号の定義式を選択肢 a〜d の中から 1 つ選びなさい。ここで α は実数の定数とする。

(a)

$$f[i] = \alpha \cdot \sin(i)$$

(b)

$$f[i] = \alpha$$

(c)

$$f[i] = \alpha \cdot \tanh(i)$$

(d)

$$f[i] = \alpha \cdot i$$

Q24　(10 点)　ID: text01/page06/024

直流 (DC) 信号 $a[i] = 2$ とディジタルサイン波 $b[i] = \sin(2\pi/4 \cdot i)$ が与えられた時、合成信号 $h[i] = a[i] + b[i]$ のグラフを選択肢 a〜d の中から 1 つ選びなさい。

(a)

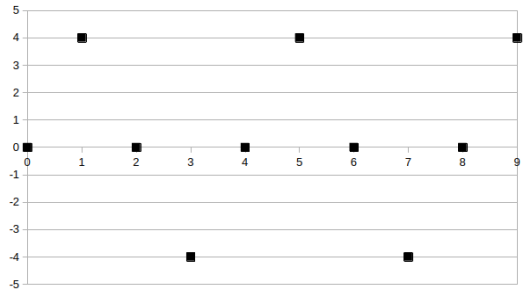

(b)

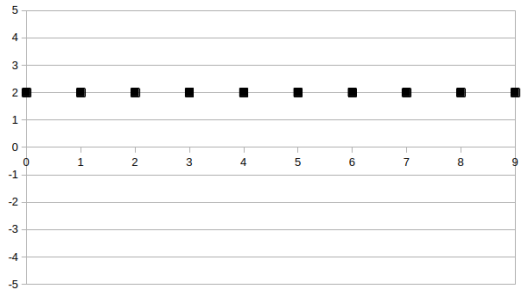

(c)

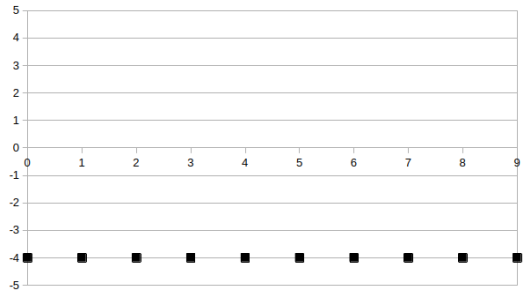
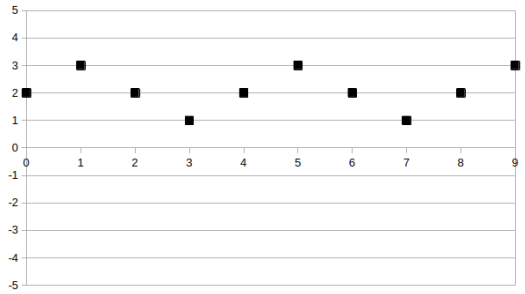
(d)